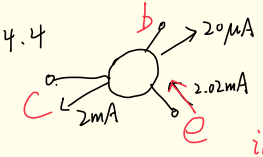
4.4

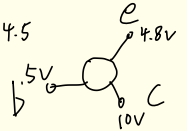


$i_E > i_C > i_B$

$\beta = \frac{i_C}{i_E} = \frac{2mA}{2\mu A} = 100.$

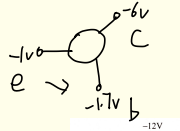
i_E 流入，为 NPN 型

4.5



由 5 − 4.8 = 0.2 判定为锗管

C 区电位最高，NPN 型

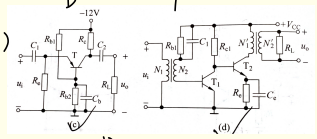


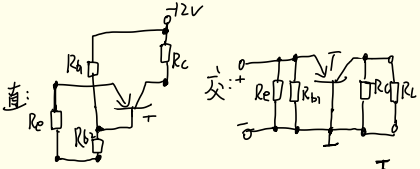
-1.7 − (-1) = -0.7 判为硅管

PNP 型

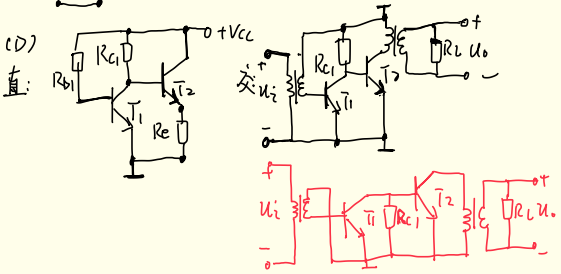


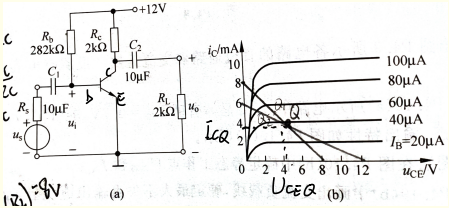
4.9. (c)





(b)





4.10


(1) 由KVL: $12 - R_c \cdot I_{CQ} = U_{CEQ}$ ① $\Rightarrow I_{BQ} \approx 40\mu A$.

$12 - I_{BQ} R_b = U_{CEQ}$ ②

可得直流负载曲线，与 $I_B = 40\mu A$ 交于 Q 为静态工作点

得 $U_{CEQ} \approx 4V$. $I_{CQ} \approx 4mA$

(2) 交流通路:



$V_{CC}' = U_{CEQ} + I_{CQ} R_L'$

$= U_{CEQ} + I_{CQ}(R_c // R_L)$

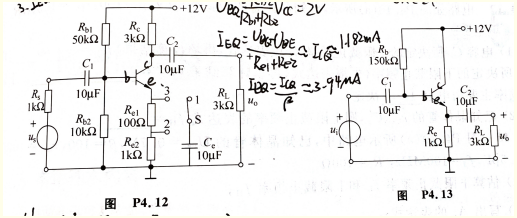
$\approx 8V$

$U_{om} = \frac{4 - U_{BE}}{\sqrt{2}} \approx 2.33V$

(3)

$V_{CC}' - U_{CEQ} = 4V > U_{CEQ} - U_{BE} = 3.3V.$

(4). $R_b \downarrow \rightarrow$ Q 左移 $\rightarrow U_{om} \downarrow$



4.11 (1) $I_{CQ} \approx 4mA$, $r_{bb'} + \beta \frac{U_T}{I_{CQ}} = (100 + 100 \times \frac{26}{4})\Omega = 726\Omega$

$\dot{A}_u = \frac{\dot{U}_o}{\dot{U}_i} = \frac{\beta(R_e // R_L)}{r_{be}} \approx -133.3$, $R_i = R_b // r_{be} \approx 726\Omega$

$\dot{A}_{us} = \frac{\dot{U}_o}{\dot{U}_s} = \frac{\dot{U}_i}{\dot{U}_s} \cdot \frac{\dot{U}_o}{\dot{U}_i} = \frac{R_i}{R_i + R_s} \cdot \dot{A}_u \approx -57$, $R_o = R_c = 2k\Omega$

(2) $R_b \uparrow \rightarrow I_{BQ} \downarrow \rightarrow r_{be} \uparrow \rightarrow |\dot{A}_u| \downarrow \rightarrow R_i \uparrow$、$R_o$ 不变.

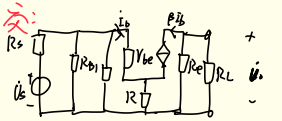
$R_b \uparrow \rightarrow \dot{A}_u$、$R_i$、$R_o$ 不变，$|\dot{A}_{us}| \uparrow$

$R_c \uparrow \rightarrow R_i$ 不变，$|\dot{A}_u| \uparrow$、$|\dot{A}_{us}| \uparrow$，$R_o \uparrow$

$R_L \uparrow \rightarrow R_i$、$R_o$ 不变，$|\dot{A}_u| \uparrow$，$|\dot{A}_{us}| \uparrow$

4.12.

(1) 设 $V_{CC} = 12V$.



$U_{BQ} = \frac{R_{b2}}{R_{b1} + R_{b2}} \cdot V_{CC} = 2V$

$I_{BQ} = \frac{I_{CQ}}{\beta} \approx 3.94\mu A$.

$I_{EQ} = \frac{U_{BQ} - U_{BE}}{R_{e1} + R_{e2}} \approx 1.182mA \approx I_{CQ}$

$U_{CEQ} = V_{CC} - I_{CQ} R_c - I_{EQ}(R_{e1} + R_{e2}) \approx 7.15V$

(2) $r_{be} = r_{bb'} + \beta \frac{U_T}{I_{CQ}} = (200 + 300 \times \frac{26}{1.182}) = 6799\Omega$

$\dot{A}_1 = \frac{\dot{U}_o}{\dot{U}_i} = -\frac{\beta(R_c // R_L)}{r_{be} + (1+\beta)(R_{e1} // R_{e2})}$ ①

$\dot{A}_2 = -\frac{\beta(R_c // R_L)}{r_{be} + (1+\beta)R_{e1}}$ ②

$\dot{A}_3 = \frac{\beta(R_c // R_L)}{r_{be}}$ ③

$\Rightarrow \dot{A}_1 \approx -1.33$

$\dot{A}_2 \approx -12.2$

$\dot{A}_3 \approx -66.2$

4.13.

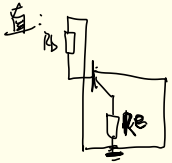
(1) $I_{BQ}=\frac{12-U_{BE}}{R_b+(1+\beta)R_e}$ ①

$I_{CQ}=\beta I_{BQ}$ ②

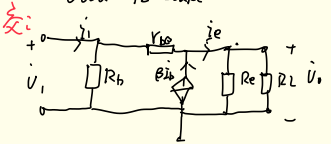
$U_{CEQ}=12-I_{CQ}R_e$ ③

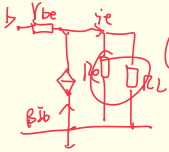
⇒ $I_{BQ}\simeq 28.2\mu A$, $I_{CQ}\simeq 7.05mA$, $U_{CEQ}\simeq 4.95V$.

直：



交：





$(R_e//R_L)$ $(1+\beta)$

$r_{be}=r_{bb'}+\beta\frac{U_t}{I_{CQ}}\simeq 1222\Omega$

$\dot{A}_u=\frac{\dot{U}_o}{\dot{U}_i}=\frac{(1+\beta)(R_e//R_L)}{r_{be}+(1+\beta)(R_e//R_L)}\approx 0.99$.

$R_i=R_b//[r_{be}+(1+\beta)(R_e//R_L)]\simeq 83.7\,K\Omega$

$R_o=R_e//\frac{r_{be}}{1+\beta}\simeq 4.85\Omega$.

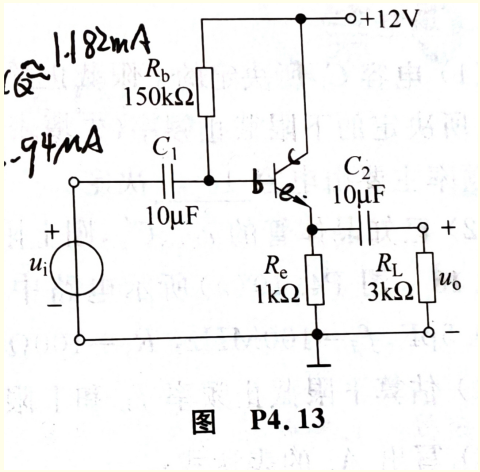


图 P4.13

电路静态分析，等效转化为对应Rbe电阻和电流源很重要，画好直流通路和交流通路，利用戴维宁等效能方便求出Ri，Ro，找到静态工作点，利于分析当某个元件变换时，其它元件的变化情况。

20241071129 改完